**Subject: Chemistry (CY1L001)**

*Dr. Vijayakrishna Kari*

## Worksheet-1

**1. Provide the absolute configuration of the chiral carbons in the following structures.**

a) 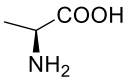


b) 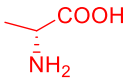


c) 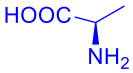


d) 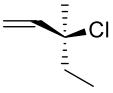


e)


f) 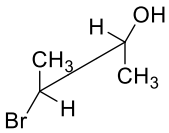


g) 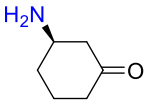


h) 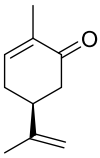


i) 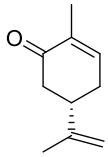


j) 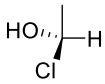


k) 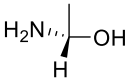


l) 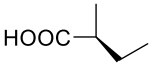


m)


n) 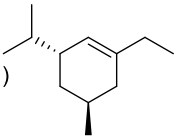

o) 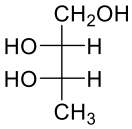


p) 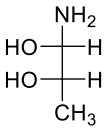


**2. Write the major and minor products in the following reactions.**

a) 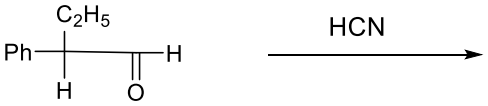


b) 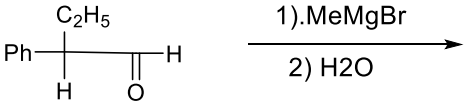


c) 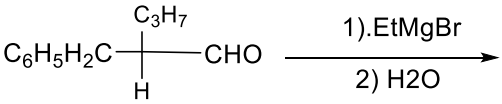


d) 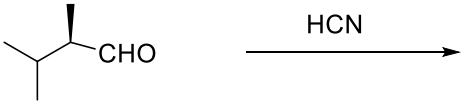


e) 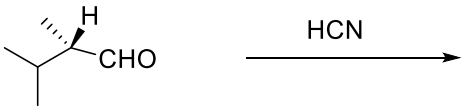

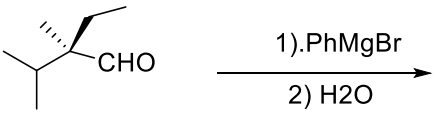
f)